Image	Question-answer pair
	Q: Where is the hognose snake located relative to the cheetah? A: The hognose snake is located in the top-left of the cheetah.
	Q: How is the pelican positioned with respect to the baboon? A: The pelican is at the bottom-left of the baboon.

(a) Dataset examples

Baseline	*und* → *gen*	*gen* → *gen*

Prompt: The wine glass located in the bottom-right of a kite.

		

Prompt: The truck can be found to the top-left of a baseball bat.

(b) Qualitative results